1. Perhatikan gambar berikut ini.

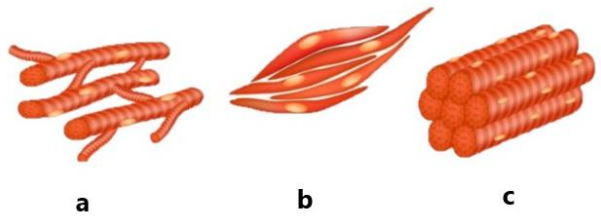

Lengkapi tabel di bawah ini!

Pembeda	a	b	c
Tempat			
Bentuk			
Jumlah & letak nukleus (inti sel)			
Tipe kontrol			
Cara kerja			

2. Titik pertemuan antara dua tulang atau lebih, yang memungkinkan pergerakan dan fleksibilitas tubuh manusia disebut dengan _____.
3. Macam-macam sendi dibagi menjadi dua kelompok utama.
   a. sendi berdasarkan pergerakannya:
      1) _____
      2) _____
      3) _____
   b. sendi berdasarkan bentuk dan arah geraknya:
      1) _____
      2) _____
      3) _____
      4) _____
4. Identifikasilah sendi yang tertampil digambar di bawah ini!

Gambar	Sendi
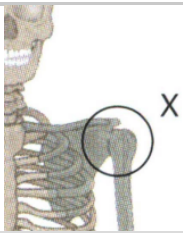	
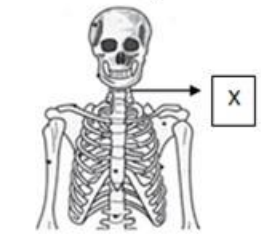	
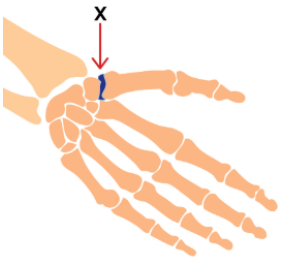	

5. Perhatikan gambar di bawah ini!

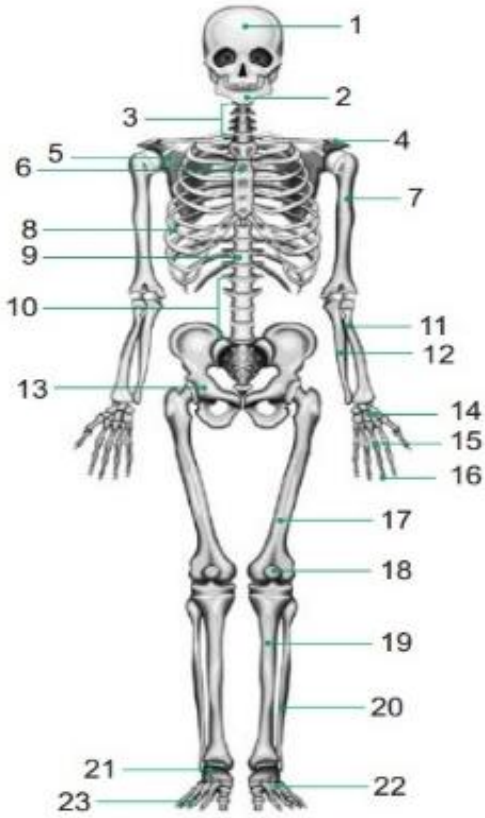

Lengkapilah gambar rangka tubuh manusia di atas!

6. A student conducted food tests on a solution given to him. Complete the table to show the conclusions which can be drawn from the tests.

Food test	Observation	Conclusion
Sample mixed with Benedict's solution	Orange-red precipitate formed	
Sample mixed with sodium hydroxide and 1% copper sulfate, drop by drop (Biuret)	Violet color observed	
Sample mixed with iodine solution (Lugol)	Blue-black color observed	

7. Four different foods were tested for their composition. The results are shown in the table. Which food contains protein but not reducing sugar or starch?

	Benedict's test	iodine test	biuret test
A	blue	black	purple
B	blue	brown	purple
C	brick red	black	blue
D	brick red	brown	blue

8. Food digestion is the process of breaking down food from a large size into smaller and finer sizes, as well as breaking down complex food molecules into simple molecules using enzymes and digestive organs. The process of food digestion in the human body can be divided into two types: _____ digestion and _____ digestion.

9. Fill the blank
   a. _____ digestion is the mechanical breakdown of food into _____ pieces without any chemical change to the food molecules.
   b. _____ digestion is the breaking down of the _____ molecules in food into _____ soluble molecules that can be absorbed. This involves chemical reactions catalyzed by digestive _____.

10. The diagram shows the teeth of the lower jaw of a human.

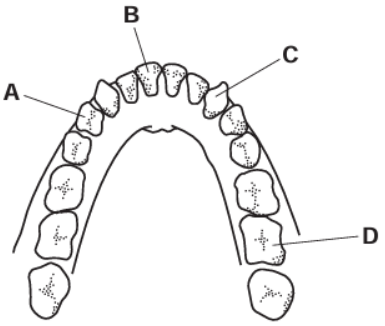

Name the structures labelled A, B, C, and D.
A _____
B _____
C _____
D _____

11. Write down the formula for primary teeth (milk teeth) and permanent teeth!

Primary teeth	Permanent teeth

12. This figure is a diagram of the human alimentary canal.

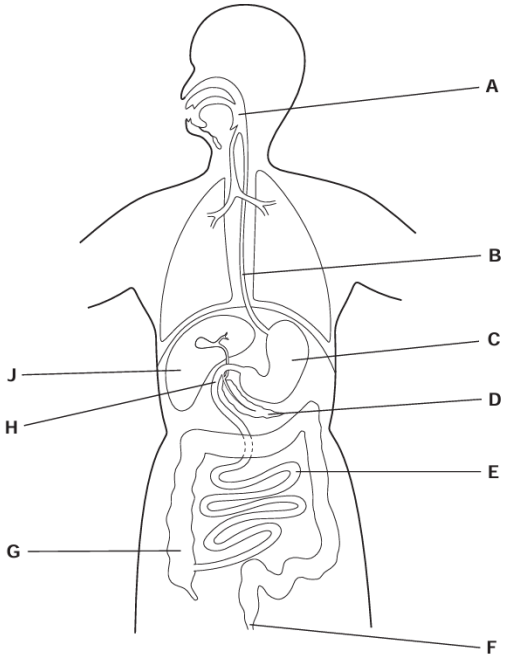

   a. Name the structures labelled A-J.
   A _____
   B _____
   C _____
   D _____
   E _____
   F _____

G _____
H _____
J _____

b. Use the letters from the figure to complete the table to give the part of the human digestive system that is identified by each function. Write one letter only in each box. You may use the same letter more than once. There are some letters that you will not use. The first one has been done for you.

Function	Letter
Peristaltic	
Protein digestion	
Insulin production	
Deamination	
Partially digested food is mixed with bile	
Most water is reabsorbed	
Part does protein digestion begin	
Organs does the digestion of carbohydrates take place	

13. True or False

Statement	True of False
The esophagus is a pathway for food from the mouth to the stomach, functioning through peristaltic movement.	
The small intestine is an organ for the breakdown and absorption of nutrients	
The stomach is an organ for digesting food with the enzyme amylase and stomach acid (HCl)	
The large intestine is site for water absorption and decomposition of food residues	
The mouth, which produces enzymes that break down complex proteins into simpler ones.	
The stomach, which functions as the site of physical and chemical digestion.	

14. Complete the table below, which illustrates the digestive process.

Region of digestion	Active Enzyme	Substrate	Product(s)
Mouth	Amylase		
Stomach			Pepton
Small Intestine	Maltase		
			Amino acids
	Lipase		

15. The main mechanical process that takes place in the stomach is …
    a. segmentation of food into chyme
    b. mixing of food by stomach muscle contractions
    c. breakdown of food by digestive enzymes
    d. absorption of nutrients into the bloodstream

16. Which of the following is NOT a function of hydrochloric acid in the stomach?
    a. activation of pepsinogen
    b. denaturation of proteins
    c. emulsification of fats
    d. elimination of ingested pathogens

17. The enzyme pepsin is produced from its inactive form pepsinogen by …
    a. the action of rennin
    b. the acidic environment provided by HCl
    c. mechanical mixing in the stomach
    d. secretion of bile from the liver

18. Lengkapilah kalimat rumpang di bawah ini!
    Proses pencernaan protein pertama kali terjadi di _____. Di dinding organ tersebut memproduksi enzim _____. Enzim tersebut akan mengubah protein menjadi _____. Lalu, pankreas akan menghasil enzim _____ dan menyalurkannya ke _____. Disanalah terjadi pen-gubahan _____ menjadi _____ dengan bantuan enzim _____. Dan akhirnya protein sederhana (_____) tersebut akan diserap di _____.

19. Lengkapilah kalimat rumpang di bawah ini!
    Proses pencernaan karbohidrat pertama kali terjadi di _____. Kelenjar ludah menghasilkan en-zim _____ yang akan mengubah _____ menjadi _____. Pankreas juga menghasilkan enzim _____ yang akan disalurkan ke _____. Di _____ juga terjadi pemecahan _____ menjadi _____. Lalu dinding _____ menghasilkan enzim _____ dan akan mengubah _____ menjadi _____ + _____ yang merupakan bentuk sederhana dari karbohidrat. Dan akhirnya akan diserap di sepanjang usus halus.